Chapter 1

Charge

If you rub a balloon against your hair, then place it next to a wall, it will stick. Why does this happen? This is exactly what will be explored in this chapter on **charge** and **electrostatics**. This is because the balloon has stripped some electrons from your hair, and now the ballon has slightly more electrons than protons. We say that it has gotten an *net electrical charge*, or an imbalance between protons and electrons. While any **friction** or contact between two objects can cause a difference in electric charge, *net charge cannot be created or destroyed*. In this case, the balloon has a negative electrical charge. Objects with slightly more protons than electrons have a positive charge. Consequently, your hair now has a positive charge. Note that the differences are equal but opposite.

An object with a negative charge and an object with a positive charge will be *attracted* to each other. Two objects with the same charge will be *repelled* by each other. This charge originates from a subatomic level, when protons (positively charged) and electrons (negatively charged) are present in an atom at *unequal amounts*.

This charge, referred to as *elementary charge* is represented by the base unit e (not to be confused with the e^x function in math disciplines). This value, known as the elementary charge (e), represents the smallest indivisible unit of electric charge. Much like counting physical coins, you cannot have a "fractional" coin. Similarly, an object's net charge must be an integer multiple of e. In physics, we describe this property by saying that charge is quantized ($Q = ne$ where n is an integer).

In this way, we call elementary charge *quantized*. This was shown back in Because it is quantized, we represent the charge of a particle as q. The SI (International System of Units) measures charge in *coulombs*. The charge of a single proton is about 1.6×10^{-19} coulombs.

Two objects with charges are bound to either attract (pull) or repel (push) on each other. This is a type of force referred to as *electric force*.

Coulomb's Law

If two objects with charge q_1 and q_2 (in coulombs) are r meters from each other, the force of attraction or repulsion (electric force) is given by

$$F = k\frac{q_1 q_2}{r^2} \tag{1.1}$$

where F is in newtons and K is Coulomb's constant: about 8.988×10^9. You may use $9 \times 10^9\,\mathrm{N \cdot m^2/C}$ in your calculations.

This k value comes from $\frac{1}{4\pi\epsilon_0}$, a *relationship with the permittivity of free space*, ϵ_0.[1] You may see this as F_e, F_q, or F_c, but they all refer to the electric force and the standard is F_e.

Note how similar this looks to Newton's Law of Universal Gravitation:

$$F_g = G\frac{m_1 m_2}{r^2}$$

Both laws follow an inverse-square relationship, meaning the force decreases with the square of the distance. However, gravity is always attractive, while electric force can be either attractive or repulsive depending on the signs of the charges (q_1 and q_2).

If this force is negative, it represents the idea that the two given particles are attracted to each other, as this would mean one of the particles must have a negative charge.

If this force is positive, it would mean there is a push or repelling force on each of the particles.

What if this force is zero? This would only result if one or both particles have zero charge. This would mean that they do not have an electric force, $F_E = 0$.

Exercise 1 Coulomb's Law

Two balloons are charged with an identical quantity and type of charge: -5×10^{-9} coulombs. They are held apart at a separation distance of 12 cm. Determine the magnitude of the electrical force of repulsion between them.

Working Space

Answer on Page 17

[1] A note on the permittivity of free space: ϵ_0 (or the electric constant) represents the capability of a vacuum to permit electric field lines. Its exact value in SI units is $\epsilon_0 \approx 8.854 \times 10^{-12}\ \mathrm{C^2/(N \cdot m^2)}$. This tells us that the speed of light isn't just a number but rather it is strictly determined by how quickly the universe can allow electric and magnetic fields to change. Using k allows for quick math, ecspecially when fields become spherical and the π factor is eliminated easily.

At this point, you might ask "If the wall has zero charge, why is the balloon attracted to it?" The answer: the electrons in the wall move away from the balloon, polarizing the atoms. The negative charge on the balloon pushes electrons away from itself, so the surface of the wall gets a mild positive charge. The negative charge on the balloon is attracted more to the positive charge on the surface of the wall than the negative charge on the inside, thus the balloon sticks. This is due to the idea of *conductors* and *insulators*.



Figure 1.1: The negative balloon repels the wall's electrons, leaving a net positive surface. The balloon is then attracted to this induced positive charge.

Recall that a **conductor** is a type of material through which valence electrons (electrons in the outer shell) easily flows, and an **insulator** is a type of material through which charge does not easily flow, if at all. Metals, such as copper or zinc, are the best conductors because the electrons within the atoms are not tied to a nucleus, but rather form a sparse collection or sea in which the charge can flow through. Insulators like plastic, rubber, or glass are prevent charge flowing through as the electrons are tightly bound to their parent atoms or molecules.

1.0.1 Point Charge

The wall and the balloon all contain a bunch of tiny particles which we can refer to as **point charges**. A point charge is an electric charge that is treated as a concentrated single point in space, with no physical size or volume. Similar to point masses, we use point charges to simulate effects of charge on other objects or points.

This charge acts parallel to the secant line that touches both point charges only once.

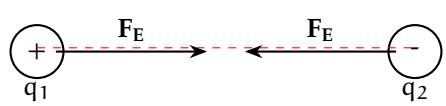

1.0.2 Superposition

What if there are more just one charges acting on a given point charge? Coulomb's law gives the force between two point charges, but in a system with three or more charges we apply the **principle of superposition**[2].

The principle of superposition states that the total electric force on a charge is the vector sum of the individual forces exerted on it by all other charges.[3]

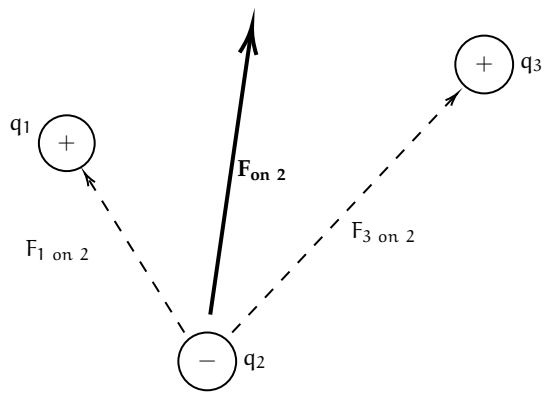

Exercise 2 Finding net charge on a point charges

Working Space

This question is taken from the AP Physics C 19th edition practice workbook.

Consider four equal, positive point charges that are situated at the vertices of a square. Find the net electric force on a negative point charge placed at the square's center.

Hint: draw a diagram to help you

Answer on Page 17

[2]Superposition is really a linear algebra topic, and not something that this textbook will cover, but it has so many real life applications and we recommend you do your own research! See the wiki page for more: https://en.wikipedia.org/wiki/Superposition_principle

[3]This is similar how we calculate tensions when there are multiple tensions (or just forces in general) on an object. The net force is the sum of all the forces after vector addition is applied.

1.1 Electric Field

Recall that, when we talked about Gravitational Fields, we defined them as fields of infinitesimal points that each have a magnitude of force associated with them. This field revolves around the entire 2D circle or 3D sphere (generally point masses, charges, fields, etc are spherical).

Similar to how the gravitational field extends out from the center of a given point mass, an *electric field* of a point charge has (imaginary) vectors pointing out of it. However, the direction of the vectors[4] (and electric force) depends on the the charge of the point charge. A negatively charged point mass has force lines pointing *towards* it, and a positively charged point mass has force lines pointing *away* from it (1.2a). In short, they always originate from positive charges and approach negative charges.

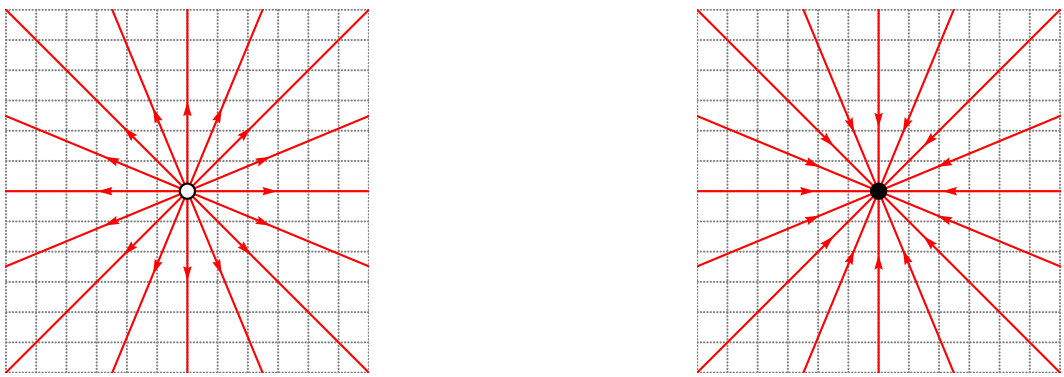

(a) A positively (open circle) charged electric field with corresponding electric field lines.

(b) A negatively (filled circle) charged electric field with corresponding electric field lines.

Figure 1.2: Two electric fields with different charges.

Imagine that there is a charge Q and a tiny particle test point q_t. Moving q_t, the test particle around, away from, further, and closer to the electric field of Q changes the force that Q feels. The force changes based on where the test particle q_t is. Recall that force is a vector, and the electric field is also a vector, so we can create a resulting formula:

$$\vec{\mathbf{E}} = \frac{\vec{\mathbf{F}}_e}{q_t} \tag{1.2}$$

What are the *units* of an electric field? Well, by this equation, $\vec{\mathbf{F}}_e$ is a force which we know is in *Newtons* (N), and the test particle q is in Coulombs (C). The resulting units are $\mathrm{N\,C^{-1}}$, or Newton's per Coulomb. Note that this is equivalent to $1\,\mathrm{V\,m^{-1}}$, or one Volt per meter[5]. This is how electric field forces are converted to volts within batteries or circuits!

[4] You may hear the terms electric field lines and electric field vectors used interchangibly

[5] Equivalently, one $\mathrm{kV\,cm^{-1}}$, or kilovolt per centimeter is equal to $10^{-5} \times 1\mathrm{N\,C^{-1}}$. To reverse the operation, multiply the kilovolts per centimeter by 10^5 to get the resulting Newtons per Coulomb

It is important to note that we can simplify this this equation by substituting Coulomb's law:

$$\vec{\mathbf{E}} = \frac{\vec{\mathbf{F}}_e}{q_t} = \frac{\frac{kq_1q_t}{r^2}}{q_t} = \frac{kQ}{r^2} \tag{1.3}$$

where Q is the electric field's source charge.

For postive charges Q, the force vectors get weaker the farther from the charge (visually, the force lines get shorter). In fact, it decreases by a factor of $\frac{1}{r^2}$. Think to yourself where this factor comes from. (Hint: refer back to Coulomb's law (1.1))

Exercise 3 Point Charges and Electric Fields

This problem is adapted from an Example IB Exam. Two isolated point charges, X of charge +Q and Y of charge +2Q, are separrated by distance 3d. Point P is distance d from X and distance 2d from Y.

What is the net electric field strength at P? Are the forces from each charge equal?

1. 0, equal forces
2. $\frac{2kQ}{d^2}$, equal forces
3. $\frac{kQ}{2d^2}$, equal forces
4. $\frac{2kQ}{1.5d^2}$, equal forces

Working Space

Answer on Page 17

The density of the electric force lines at a given point determines the strength of the force at the point. Locations where field lines are more dense are much stronger than areas where the lines are sparse. This goes back to the idea of the force strength of an electric field.

If you recall the properties of conductors: *there can be no electrostatic field within the body of a conductor*. If an electric field were to exist inside the conductor, it would exert a force $F = qE$ on these free charges, causing them to accelerate. This internal motion continues

until the charges redistribute themselves along the conductor's outer surface, creating an induced internal field that perfectly opposes and cancels the original field.

Electric field lines always

- Start at positive charges and terminate at negative ones. If it is a single charge, this is indicated by the direction of arrows off to infinity.
- The number of lines is proportional to the magnitude of charge.
- The line approaches a conductive surface perpendicularly.
- No two field lines ever cross in a charge-free region.

Keep these in mind for any sketches you may do.

1.2 Dipoles

An **electric dipole** is a set of two *point charges* that equal and opposite charges that are infinitesimally close together. Two point charges, one with charge $+q$ and the other one with charge $-q$ separated by a distance d, create an electric dipole.

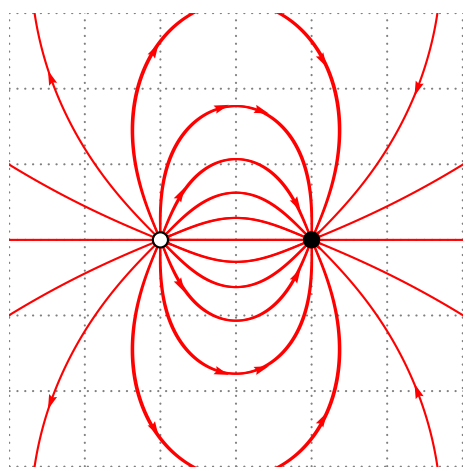

Figure 1.3: A basic dipole diagram.

Charge flows consistently from postive to negative, and has magnitude $\vec{\mathbf{p}} = q\vec{\mathbf{d}}$, where $\vec{\mathbf{p}}$ is the dipole moment with units $C \cdot m$, or Coulomb-meters.

1.3 Electric Flux and Gauss's law

Electric Flux is the number of field lines that pass through a given surface. Represented by Φ, it is the measure of how much of an electric field itself passes through an area.

The electric flux depends on 3 factors:

- Electric Field Strength ($\mathbf{E}$)
- Surface Area being measured, ($\mathbf{A}$). $\mathbf{A}$ must be perpendicular to the field lines.
- Angle at which the area is relative to the field lines.

If the electric field lines are perpendicular to the area $\mathbf{A}$, then the electric flux is

$$\Phi = \sum \mathbf{E} \cdot \mathbf{A} \tag{1.4}$$

Think of this as a paper directly perpendicular to a fan; the maximum amount of the paper is blown by the fan.

If the paper is at an angle to the fan, less flow from the fan affects the paper. If you tilt it until it's parallel to the wind, zero wind affects the paper. Similarly, the electric flux on a surface at a titled angle decreases how much flux is felt:

$$\Phi = \sum \mathbf{E} \cdot \mathbf{A} \cos(\theta) \tag{1.5}$$

In integral form (which we have not covered yet, so do not worry about using it), this is:

$$\Phi = \oint \mathbf{E} \cdot d\mathbf{A} \cos(\theta) \tag{1.6}$$

where the integral is on a closed area.

If you recall our discussion on resistance, flux and resistance are very similar measurements. In a wire, a larger cross-sectional area (A) is like a highway for electrons. It allows more electrons to pass through easily, which decreases the resistance. If you maximize flux by having a huge area, you are essentially creating a path with very low resistance for a current.

1.3.1 Gauss's law

So far, we have imagined the electric field is only 2-dimensional plane (a circle). What if we consider them as a 3-dimensional boundary, similar to gravitation? This introduces the idea of *Gauss's Law for Electric Fields*:

Gauss's Law

Gauss's law states that the strength of an electric field for 3-Dimensional object can be calculated by:

$$\Phi = \oiint \vec{\mathbf{E}}\, d\vec{\mathbf{A}} \cos(\theta) = \frac{Q_{enc}}{\epsilon_0} \tag{1.7}$$

This is a formula for saying that every infinitessimal bit of a 2-Dimensional object is given a height and an electric strength, and this is equal to the enclosed area of the charge over the permittivity of free space constant.

For specifically spherically 3-Dimensional objects, inputting the formula for a sphere into A gives us:

$$E = \frac{q}{4\pi r^2 \epsilon_0} \tag{1.8}$$

where q is the source charge, r is the distance from that source charge, and $4\pi r^2$ is the surface area of the electric field. What this means is that electric field at all points r from the source charge are equal in magnitude. Pretty cool!

1.4 Continuous Charge Distributions

In the previous sections, we treated charges as discrete "dots" in space. However, in applications of charges such as a long charged wire, a flat metal plate, or a solid plastic sphere, charge is spread out over a macroscopic object. When we have a collection of so many point charges that they appear to form a smooth, "fluid-like" surface or volume, we call it a **continuous charge distribution**. This means that the charges, while not truly continuous, can be considered continous as a long single stream.

To analyze these, we stop summing individual particles ($\sum$) and instead use calculus to integrate ($\int$) over the entire object. While we have not covered calculus yet, keep in mind that this is just a way of calculating the area or volume of a continuous solid.

1.4.1 Charge Densities

The first step in any continuous distribution problem is defining how the charge is spread. We use three Greek letters to represent the "concentration" of charge based on the object's geometry:

Type	Symbol	Definition	SI Units
Linear	λ (lambda)	Charge per unit length	C/m
Surface	σ (sigma)	Charge per unit area	C/m^2
Volume	ρ (rho)	Charge per unit volume	C/m^3

Table 1.1: The three types of charge density used in electrostatics.

If the charge is distributed **uniformly**, these values stay constant. For example, for a rod of length L and total charge Q, the linear density is simply $\lambda = Q/L$. However, if these the charge is not constant per the unit of length, we must use calculus to find the total charge density. To find the total electric field $\vec{\mathbf{E}}$ at a point P near a charged object, we imagine breaking the object into many infinitesimal "pieces" of charge, dq. Each chunk acts like a tiny point charge and contributes a tiny bit of electric field, $d\vec{\mathbf{E}}$.

Recall our point charge formula:

$$d\vec{\mathbf{E}} = \frac{1}{4\pi\epsilon_0}\frac{dq}{r^2} \tag{1.9}$$

To find the total field, we integrate over the entire distribution:

$$\vec{\mathbf{E}} = \int d\vec{\mathbf{E}} = \frac{1}{4\pi\epsilon_0}\int \frac{dq}{r^2} \tag{1.10}$$

The key to solving these integrals is replacing dq with the appropriate density:

- Lines: $dq = \lambda\, dl$
- Surfaces: $dq = \sigma\, dA$
- Volumes: $dq = \rho\, dV$

For now, you will not be quizzed on these integrals but know of their existence and that charge can be treated as a virtual stream along an object. This is why any part of the balloon from our first example will stick to any part of the wall.

Exercise 4 Belt being charged

Working Space

This question is from an IB Electromagnetics problem. A continuous conveyer belt of width 0.60 m travels at a constant speed of $2.5\,\mathrm{ms}^{-1}$. The belt has a uniform distribution of charge of $5.0\mathrm{mCm}^{-2}$ on the surface. As the belt passes a point A, all the charge is transferred into the wire with width along the horizontal of the belt.

What is the charge on the wire? *Hint: recall that current is* $\frac{\Delta Q}{\Delta t}$.

Answer on Page 18

1.5 Electric Potential

Let's talk about electric potential and electric potential energy. Recall that objects can have *kinetic* and *potential* energy, that potential energy is gradually transported into kinetic energy.

Electric Potential describes the amount of work, W_E, done by an electric force. The change in **electric potential energy** is defined as the work done on that force:

$$\Delta U_E = -W_E \tag{1.12}$$

Notice how this is similar to an object of mass m undergoing work done by a gravitational field $\Delta U_G = -W_G$.

Exercise 5 Change in Electric Potential Energy

Working Space

A positive charge $+q$ moves a distance r from position X to position Y in a **uniform** electric field E.

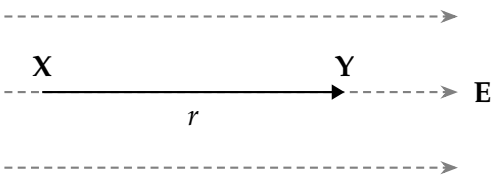

What is its change in electric potential energy? Assume moving in direction r moves in the direction of E.

Answer on Page 18

Electric Potential (V) is the amount of work needed to move a test charge q_t from a reference point to a specific point in a static electric field. It describes the potential for a charge to have energy at that location, regardless of whether a charge is actually there. Electric Potential Energy (U_E) per unit charge where ($V = U_E/q$).

Just as moving a mass up in height against gravity increases its gravitational potential, moving a positive charge "up" against an electric field increases its electric potential. In both cases, the field *tries* to push the object toward a state of lower potential energy. A positive charge naturally wants to move with the electric field toward lower potential; in this case, its electric potential energy is converted into kinetic energy. Conversely, to move a positive charge against an electric field, work must be done on the charge, causing its electric potential to increase.

Moving from two points not on the same electric field line introduces an angle component θ:

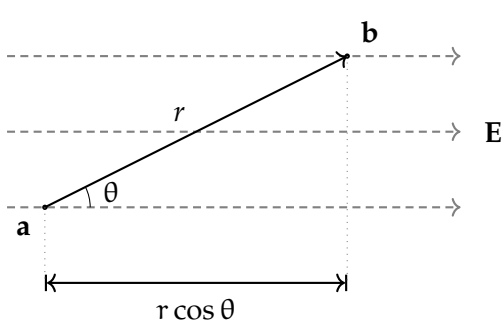

Figure 1.4: A gain of potential energy across an angle.

The electric potential difference between two points A and B is defined by the line

integral of the electric field:

$$\Delta V = V_B - V_A = -\int_A^B \vec{\mathbf{E}} \cdot d\vec{\mathbf{l}} \tag{1.13}$$

The negative sign indicates that the potential decreases in the direction of the electric field.

We can easily define two point charges q_1 and q_2 seperated by distance r to have potential energy

$$U = k\frac{q_1 q_2}{r} = \frac{1}{4\pi\epsilon_0}\frac{q_1 q_2}{r} \tag{1.14}$$

1.5.1 Point Charges, Uniform Fields, and Spherical Shells

In a **uniform electric field** (such as the space between two large parallel plates), the field strength E is constant. The potential difference between two points separated by a distance d along the field lines is:

$$\Delta V = -Ed \tag{1.15}$$

For a **point charge** Q, we typically set the reference point ($V = 0$) at infinity. The potential at a distance r from the charge is:

$$V = \frac{1}{4\pi\epsilon_0}\frac{Q}{r} \tag{1.16}$$

Unlike the electric field, which is a vector and follows an $1/r^2$ factor, electric potential is a **scalar** and follows an $1/r$ factor.

Surface Spherical Charge

For all spherical objects of radius R (surface spheres - assume hollow interior), it has potential inside and outside of the shell. For all points outside the shell, it is the same for any point charge Q, as seen in equation 1.16. For all points *inside* the shell, the potential is

$$V = \frac{1}{4\pi\epsilon_0}\frac{Q}{R}$$

This means that moving a test charge q from the surface of the shell to the center of the shell, the potential does not change. The potential is constant within the shell.

When the sphere is *not hollow*, the interior charge changes to:

$$k = \frac{1}{4\pi\epsilon_0}\frac{Q}{2R}\left(3 - \frac{r^2}{R^2}\right)$$

1.5.2 Potential due to Configurations of Charge

Because potential is a scalar, finding the total potential from multiple charges is often simpler than finding the total electric field. We do not need to worry about components, instead, we simply sum the potentials:

$$V = \sum_i \frac{kq_i}{r_i} \quad \text{or for continuous distributions} \quad V = k\int \frac{dq}{r} \tag{1.17}$$

1.5.3 Conservation of Energy

When a charge q moves through a potential difference ΔV, the change in its electric potential energy is $\Delta U_E = q\Delta V$. If no other forces are acting on the charge, the total mechanical energy is conserved:

$$K_a + U_{E,a} = K_b + U_{E,b} \implies \frac{1}{2}mv_a^2 + qV_a = \frac{1}{2}mv_b^2 + qV_b \tag{1.18}$$

1.5.4 Summary

Particle	*wants* to move toward...	Potential Change (ΔV)	Potential Energy Change (U_E)
Positive ($+q$)	Lower Potential	Negative (Decreases)	Negative (Decreases)
Negative ($-q$)	Higher Potential	Positive (Increases)	Negative (Decreases)

1.6 Lightning

A cloud is a cluster of water droplets and ice particles. These droplets and ice particles are always moving up and down through the cloud. Recall that heat rises, so water is often trying to get higher in the cloud. In this process, electrons get stripped off and end up on the water droplets at the bottom of the cloud (water droplets collect at the bottom because they are denser). The air between the droplets is a pretty good insulator, which means the electrons are reluctant to jump anywhere. However, eventually, the charge gets so strong that even the insulating properties of the air is not enough to prevent the jump to earth, causing lightning. *Storms* are dense in clouds, so there is constant jumping of the electrons, which is why storms are prone to produing so much lightning. These electrons really want to jump to earth, and when given enough time and ability to bypass the air's density. The electrons energy is visible as light and heat, and so we see a spark in the shape of a jagged line hitting a single point, the most conductive point on earth closest to the cloud. A great deal of lightning moves within a cloud or between clouds. However, sometimes it jumps to the earth. These bolts of lightning vary in the amount of electrons they carry, but the average is about 15 coulombs.

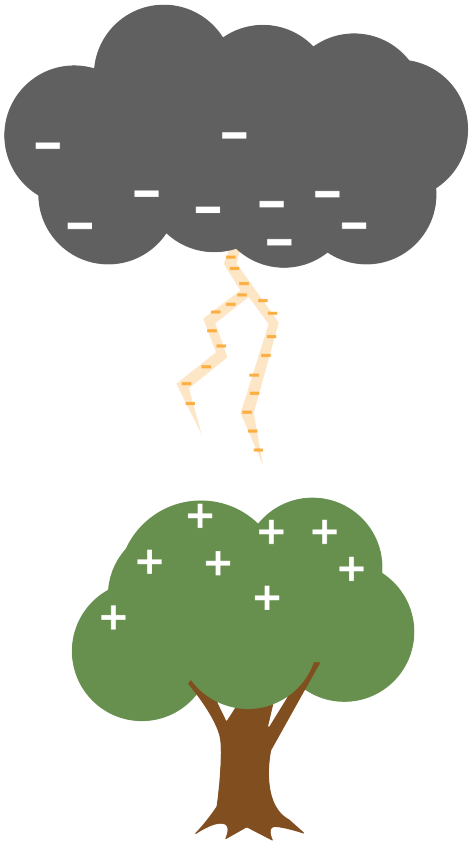

Figure 1.5: A difference of charge causes a spark of lightning to generate and transfer.

Thunder occurs because the electrons heat the air they pass through, causing the air to expand suddenly. Tthe resulting shockwave is the sound we know as thunder.

1.7 But...

This idea that opposite charges attract creates some heavy questions that you do not yet have the tools to work with. So to these questions, the answer is basically "Don't ask that yet!"

However, you probably have these questions, so we will point you in the direction of the answers.

The first is "In any atom bigger than hydrogen, there are multiple protons in the nucleus. Why don't the protons push each other out of the nucleus?"

We aren't ready to talk about it, but there is a force called *the strong nuclear force*, which pulls the protons and neutrons in the nucleus of the atom toward each other. At very, very small distances, it is strong enough to overpower the repulsive force due to the protons' charges.

Another question is "Why do the electrons whiz around in a cloud so far from the nucleus of the atom? Negatively charged electrons should cling to the protons in the center, right?"

We aren't ready to talk about this either, but quantum mechanics tells us that electrons like to live in a certain specific energy level. Hugging protons isn't one of those levels.

This is a draft chapter from the Kontinua Project. Please see our website (https://kontinua.org/) for more details.

Appendix A

Answers to Exercises

Answer to Exercise 1 (on page 2)

$$F = K\frac{|q_1 q_2|}{r^2} = (8.988\times10^9)\frac{(-5\times10^{-9})(-5\times10^{-9})}{0.12^2} = \frac{224.7\times10^{-9}}{0.0144} = 15.6\times10^{-6}\,\text{N or} 15.6\ \text{micronewtons}$$

Answer to Exercise 2 (on page 4)

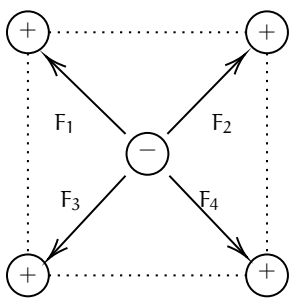

The attractive forces of F_1 and F_3 cancel each other out. Similarly, the attractive forces of F_2 and F_4 also cancel each other out. The net charge on the negative point charge is zero.

Answer to Exercise 3 (on page 6)

We noted above that the electric field caused by a point charge is defined as $E = \frac{kq}{r^2}$. We need to find the electric fields for each charge and then subtract their strengths.

Inputting known variables as constants for X from point P:

$$E = \frac{kQ}{d^2}$$

And doing the same for Y:

$$E = \frac{2kQ}{(2d)^2} = \frac{kQ}{2d^2}$$

Because the fields are in opposite directions, we subtract the smaller magnitude from the larger one. Let's define *to the right* as the positive direction:

$$E_{net} = E_X - E_Y \implies \frac{kQ}{d^2} - \frac{kQ}{2d^2}$$

To subtract, we find a common denominator:

$$E_{net} = \frac{2kQ}{2d^2} - \frac{kQ}{2d^2} = \frac{kQ}{2d^2}$$

The correct answer is C.

Answer to Exercise 4 (on page 11)

The amount of charge dQ on a small *surface* section of the belt is $dq = \sigma\, dA$. For a belt of width w, the area passing the wire in time dt is $dA = w(v\, dt)$. Substituting this in:

$$I = \frac{\sigma(w \cdot v \cdot dt)}{dt} = \sigma \cdot w \cdot v \tag{1.11}$$

Plugging in our values:

$$I = (5.0 \times 10^{-3}\ \mathrm{C/m^2}) \cdot (0.60\ \mathrm{m}) \cdot (2.5\ \mathrm{m/s})$$
$$I = 7.5 \times 10^{-3}\ \mathrm{A} = 7.5\ \mathrm{mA}$$

Answer to Exercise 5 (on page 12)

Since the field is uniform, the charge has a constant electric force felt on it: $\vec{\mathbf{F}}_E = q\vec{\mathbf{E}}$. Since q is positive, $\vec{\mathbf{F}}_E$ points in the same direction as $\vec{\mathbf{E}}$. Because the force and the displacement r are in the same direction, the work W_E done by the electric field is positive:

$$W_E = F_E \cdot r = qEr$$

Thus the change in electric potential energy is

$$\Delta U_E = -qEr$$

It is *negative* because a doing positive work results in negative change in potential energy.

Index

atoms, 1
attraction, 1

continuous charge distributions, 9
coulombs, 1
    Coulomb's law, 1

electric field, 5
    units, 5
electric flux, 8
electric force, 1
electric potential energy, 11
electrical charge, 1
electrons, 1
elementary charge, *see also* coulombs

Gauss's Law, 9

lightning, 14

net charge, 1

point charge, 3
principle of superposition, 4
protons, 1

quantized, 1

repel, 1